pulley: experiment 1

Pull 3 different using a single pulley. Find out how much effort is needed to lift each.

1.

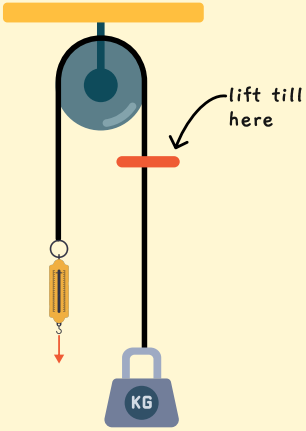

0.5 kg

2.

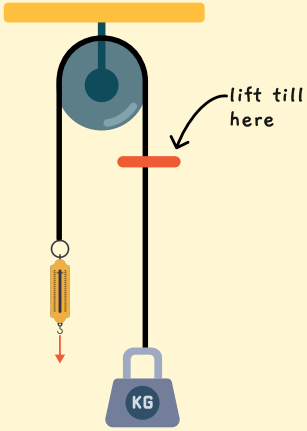

1 kg

3.

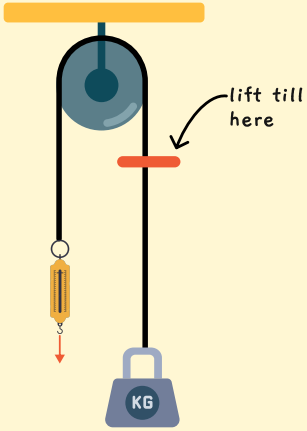

1.5 kg

observation

measure the effort for each KG used:

	KG	effort
1.	0.5kg	
2.	1kg	
3.	1.5kg	

which weight uses the most effort:

result tick the correct answer

heavier / lighter the **weight**, more / lesser the **effort**

pulley: experiment 2

Use a spring scale and a single pulley to find the effort needed for lifting:
1) 0.5kg 2) 1kg 3) 1.5kg

1.

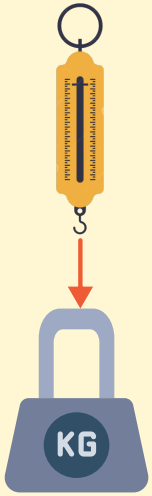

2.

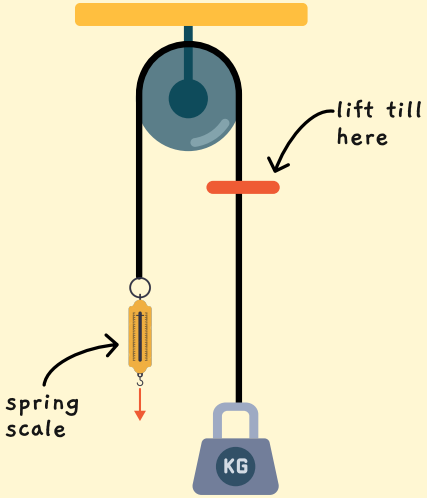

observation

measure the effort for each KG used:

	KG	effort spring scale	effort single pulley
1.	0.5 kg		
2.	1 kg		
3.	1.5 kg		

which setup uses the least effort:

pulley: experiment 3

Use a pulley to lift 1.5kg. Take 3 tries to lift 1.5kg but for each try vary the height of the pulley. Find out if the effort varies with height.

setup 1

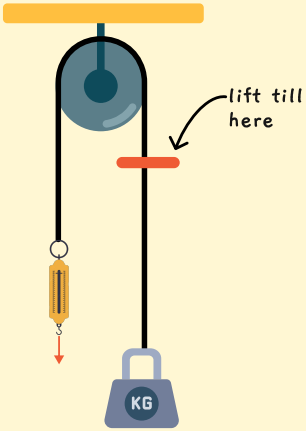

setup 2

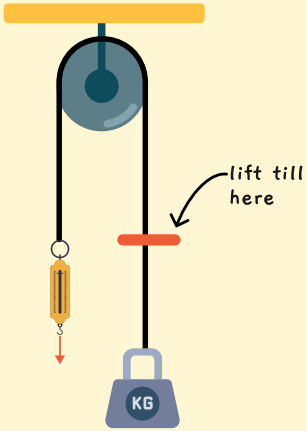

setup 3

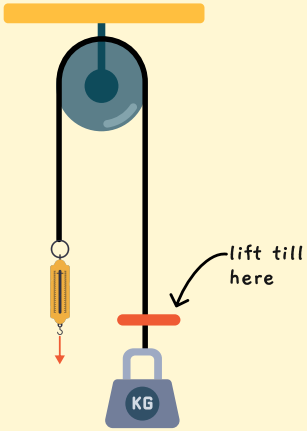

observation

measure the effort for each:

	effort
setup 1	
setup 2	
setup 3	

which setup uses the least effort:

pulley: experiment 4

Use a pulley to lift 1kg by pulling the rope from 3 different sides.
Find the effort for each.

setup 1

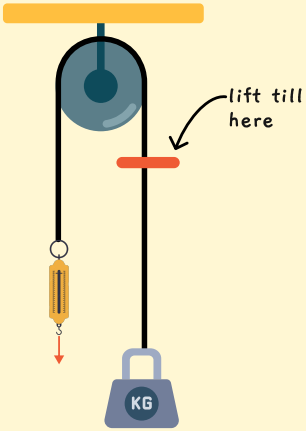

setup 2

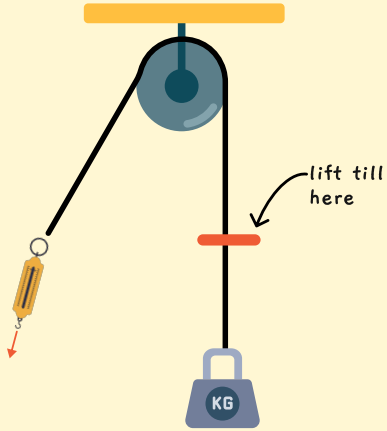

setup 3

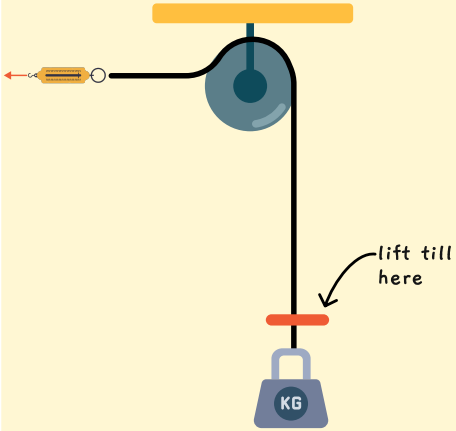

observation

measure the effort for each:

	effort
setup 1	
setup 2	
setup 3	

which setup uses the least effort: